LEARNING ACTIVITY SHEET 1

Decoding and Spelling: CVCC Words

Instruction: Write the missing letters to form the names of the following words correctly.

la _____

ra _____

te _____

gi _____

li _____

be _____

ma _____

fo _____

he _____

ba _____

Answer the questions and write your answers in a box or space provided.

1. How many days are there in a week? _____
2. Name the days in a week, write these based on their order in a calendar.

1	2	3	4

5	6	7

3. Name the days that you are supposed to be in school.

_____, _____, _____, _____,

_____

4. How many days are there on weekends? _____
5. Name the days of the weekend.

_____, _____

6. How many days in a month? _____
7. How many days are there in February? _____

Given are visual models of fractions, identify which unit fraction is represented by each and write it in fraction notation in the space provided.

1.

2. 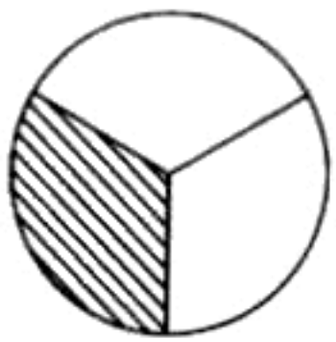

3. 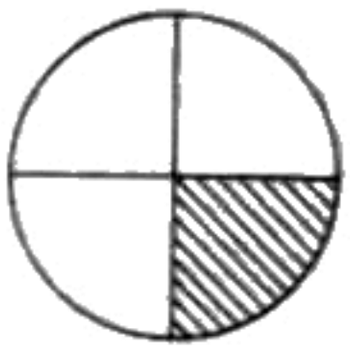

_____ _____ _____

4. 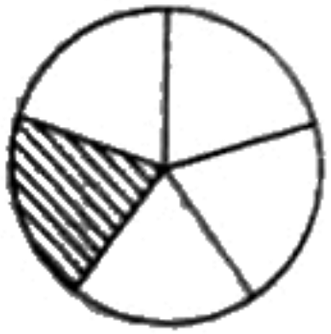

5. 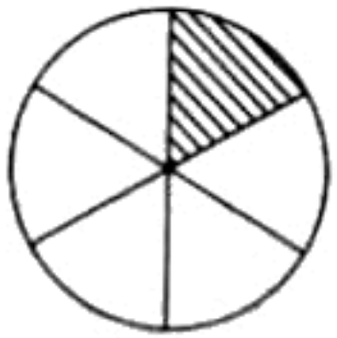

6. 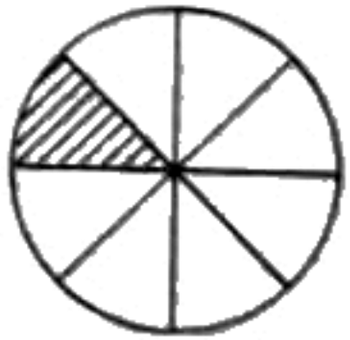

Arrange the Unit Fractions

1. Given these unit fractions $\frac{1}{3}, \frac{1}{6}, \frac{1}{2}, \frac{1}{4}, \frac{1}{8}, \frac{1}{5}$: arrange from smallest to largest.

_____, _____, _____, _____, _____, _____

2. Given these unit fractions $\frac{1}{3}, \frac{1}{6}, \frac{1}{2}, \frac{1}{4}, \frac{1}{8}, \frac{1}{5}$: arrange from largest to smallest

_____, _____, _____, _____, _____, _____

3. If you arrange these given unit fractions $\frac{1}{2}, \frac{1}{5}$ *and include* $\frac{1}{9}$, from smallest to largest. Where will you put $\frac{1}{9}$?

$$\frac{1}{\quad}, \frac{1}{\quad}, \frac{1}{\quad}$$

4. Arrange the following unit fractions: $\frac{1}{2}, \frac{1}{5}, \frac{1}{4}, \frac{1}{3}, \frac{1}{6}, \frac{1}{8}$. To fill in the missing unit fraction/s.

a. $\frac{1}{3}, _, \frac{1}{5}$

b. $\frac{1}{8}, _, \frac{1}{5}$

c. $\frac{1}{\quad}, _, \frac{1}{\quad}$

- Practice reading the following words. Then, copy the words two times.

off
its
which
why
or

1: Torotot o Puso?

Panuto: Sa sagutang papel, gumuhit ng munting torotot (🎺 kung ang pangungusap ay nagsasaad ng isang pagdiriwang sa pamayanan. Kung hindi naman, gumuhit ng puso (❤️).

___ 1. Pagdiriwang ng Pista ng Baranggay Sta. Elena.
___ 2. Paghahanda para sa iyong kaarawan.
___ 3. Pagdaraos ng Ramadan ng mga Muslim sa pamamagitan ng pag-aayuno.
___ 4. Paghahanda ng pagsasaluhan sa pagsalubong ng Bagong Taon.
___ 5. Pagpunta sa restawran para sa anniversary ng magulang.

Gawain 2: Tama o Mali?

Panuto: Sa sagutang papel, isulat ang **TAMA** kung ang pangungusap ay tumutukoy ng isang pagdiriwang na pampamayanan na nagpapabuti ng pagiging palakaibigan. **MALI** naman kung hindi.

_____ 1. Nagbabahagi ng pagkain si Sheila sa kaniyang mga kaibigan at kapitbahay tuwing pista sa kanilang barangay.
_____ 2. Tumutulong sa pagdi-disenyo ng entablado si Angelo at ang kaniyang mga kamag-aral para sa kanilang palatuntunan sa paaralan.
_____ 3. Hindi pa nakakarating ang ibang mga bisita, nagtabi at nagbalot na ng pagkain si Cynthia.

Magkasalungat na Salita

Kulayan ang dalawang magkasalungat na salita sa bawat bilang.

1.

madami	malakas	mahina

2.

lumabas	pumunta	pumasok

3.

mabilis	mabagal	mabisa

4.

mainit	malalim	malamig

5.

pumikit	matulog	gumising

Panuto: Magbigay ng mga paraan ng pagpapakita ng malasakit sa mga sumusunod:

A. Kaibigan na dumadaan sa matinding kalungkutan.

_____

_____

_____

_____

_____

B. Ibong inakay na nawala sa kanyang pugad.

_____

_____

_____

_____

_____

C. Taong hindi mo kakilala ngunit nakikita mong uhaw na uhaw at gutom na gutom.

_____

Direction: Fill in the blank with the correct word inside the box.

Word Bank:

Earth – water – air – soil – food

1. The _____ gives us everything we need to live.
2. We drink clean _____ every day.
3. We breathe fresh _____ from trees.
4. Plants grow in the _____.
5. We get _____ like fruits and vegetables from the Earth.

Activity 1: Encircle the correct answer.

1. Where do fruits and vegetables come from?
   A. Factory
   B. Earth
   C. Store

2. We get water from _____.
   A. Rivers and rain
   B. Television
   C. Toys

3. We breathe clean air from _____.
   A. Cars
   B. Trees
   C. Buildings

4. Animals live on _____.
   A. Earth
   B. Moon
   C. Sun

5. The Earth gives us _____.
   A. Food and water
   B. Homework
   C. Robots